Indian Air Force AFCAT 2021 (Memory Based)

Directions (1-2): Which word or words explains the meaning of the following idioms given in bold:

Q1. That dress made her look fat, let's **call a spade a spade** before she goes out wearing it and embarrasses herself. Source: theidioms.com
(a) ignite the argument
(b) speak in a straight forward manner
(c) remain undecided
(d) become enemy

Q2. Leaving England wasn't easy and I **had cold feet** about it a couple of times.
(a) ignored the idea
(b) felt enthusiastic
(c) experienced nervousness
(d) sought the drawbacks

Directions (3-7): In the following passage some words have been deleted. Fill in the blanks with the help of the alternatives given. Select the most appropriate option for each blank.
Sometimes, the leash follows the dog, but given the importance of control, the sequence can seem insignificant. It only matters that there remains a good hold over the circumstances. No matter then, that the Assisted Reproductive Techniques (ART) Bill, which was cleared by the Union Cabinet this week, came after the Surrogacy Bill that it should have preceded. Together, the ART Bill; the Surrogacy Bill; the amendment to the Medical Termination of Pregnancy Act; and the older Pre-Conception and Pre-Natal Diagnostic Techniques Act present a bouquet of legislation that will have a positive impact on the reproductive rights and choices of women in India. The ART Bill to (5) _____ clinics offering fertility treatments has been long in the works, and was first presented publicly way back in 2008. ART measures help couples unable to (6) _____ naturally to bear children with the aid of state-of-the-art technology to achieve pregnancy, leading to safe delivery. India has a rich history of employing ART, (7) _____ the initial years went officially undocumented at that time. In the late 1970s, only months after the birth of Louise Brown, the first 'test tube baby', Kolkata-based doctor Subhas Mukherjee announced the birth of the world's second test tube baby. Subsequently, the industry saw phenomenal growth, as infertility rates went up. A market projection (by Fortune Business Insights) said the size of the ART market is (8) _____ to reach $45 billion by 2026. Among Asian countries, India's ART market is pegged at third position. A lack of regulation and the consequent laxity in operations drove a lot of traffic from other nations to India. This, in turn, along with the relatively low costs, led to the mushrooming of ART clinics across the country. Undoubtedly, this also led to a (9) _____ of legal, social and ethical issues.

Q3. Select the most appropriate option for blank no. 1
(a) regularize
(b) appoint
(c) regulation
(d) regulate

Q4. Select the most appropriate option for blank no. 2
(a) convene
(b) convince
(c) conceive
(d) concede

Q5. Select the most appropriate option for blank no. 3
(a) through
(b) thorough
(c) thoroughly
(d) though

Q6. Select the most appropriate option for blank no. 4
(a) expected
(b) accepted
(c) excepted
(d) inspected

Q7. Select the most appropriate option for blank no. 5
(a) abundance
(b) plethora
(c) scarcity
(d) paucity

Directions (8-12): Choose the word which is nearest in meaning to the given word:-

Q8. AUDACIOUS
(a) Timid
(b) Simplicity
(c) Fearless
(d) Meek

Q9. EXONERATE
(a) Convict
(b) Acquit
(c) Haste
(d) Access

Q10. ADVOCATE
(a) Critic
(b) Withdraw
(c) Proponent
(d) Intrude

Q11. PREAMBLE
(a) Fault
(b) Significant
(c) Preface
(d) Friendly

Q12. PRODIGIOUS
(a) Negligible
(b) Lustrous
(c) Community
(d) Massive

Directions (13-17): Choose the word which is nearly opposite in meaning to the given word:-

Q13. BEGUILE
(a) Repel
(b) Elegance
(c) Dazzle
(d) Occupy

Q14. CALLOW
(a) Naive
(b) Sophisticated
(c) Artless
(d) Cessation

Q15. NIMBLE
(a) Pious
(b) Stiff
(c) Spry
(d) Outdated

Q16. WRATH
(a) Fury
(b) Delight
(c) Fake
(d) Ire

Q17. VALIDATE
(a) Verify
(b) Uphold
(c) Applaud
(d) Disprove

Directions (18-22): Read the following passage carefully and answer the questions given below it:

It has been close to 18 months since the Prime Minister, Narendra Modi, launched the country-wide implementation of Ayushman Bharat-Pradhan Mantri Jan Arogya Yojana (PM-JAY), or the national health protection scheme; the initial momentum has been very encouraging. The scheme is currently being implemented in 32 of 36 States and Union Territories. It has provided 84 lakh free treatments to poor and vulnerable patients for secondary and tertiary ailments at 22,000 empanelled hospitals, countrywide. Under PM-JAY, there is one free treatment every three seconds and two beneficiaries verified every second.

As the scale of this scheme grows, a key area of focus is to expand the secondary and tertiary hospitals empanelled under PM-JAY and ensure their quality and capacity while keeping the costs down. At present, there is one government bed for every 1,844 patients and one doctor for every 11,082 patients. In the coming years, considering 3% hospitalisation of PM-JAY-covered beneficiaries, the scheme is likely to provide treatment to 1.5 crore patients annually. This means physical and human infrastructure capacity would need to be augmented vastly. Conservative estimates suggest that we would need more than 150,000 additional beds, especially in Tier-2 and -3 cities. While a comprehensive long-term strategy will focus on expanding hospital and human resources infrastructure, an effective near-term approach is needed to improve efficiencies and bridge gaps within the existing supply and likely demand. A strong, yet under-tapped lever for accelerating health system efficiency and bridging these gaps is mainstreaming innovation in the Indian health system.

Q18. What is the other name for Pradhan Mantri Jan Arogya Yojana (PM-JAY)?
(a) New Health Scheme
(b) New Health Policy
(c) National Policy for Health Protection
(d) National Health Protection Scheme

Q19. Which among the following statements regarding PM-JAY is/are wrong?
(i) there are two beneficiaries verified every second
(ii) there are three free treatments every second
(a) Only (i)
(b) Only (ii)
(c) Both (i) & (ii)
(d) Neither (i) nor (ii)

Q20. What should be the key area of focus for PM-JAY?
(a) to expand the primary hospitals empanelled under PM-JAY.
(b) to achieve a target of providing treatment to 1.5 crore patients annually.
(c) to increase the secondary and tertiary hospitals enlisted under PM-JAY.
(d) to make the doctor-patient ratio 1:1

Q21. What should be the short-term approach of the said scheme?
(a) to expand hospital infrastructure
(b) to bridge gaps within the existing supply and likely demand
(d) to expand human resources infrastructure
(d) to provide free treatment for primary ailments

Q22. What does the Conservative estimates suggest?
(a) there is a need of more than 150,000 additional beds
(b) the scheme is likely to provide treatment to more than 1.5 crore patients
(c) the government will double the funds allocated for the scheme
(d) there is a need of more than 2 lakh doctors

Directions (23-25): Choose the best phrasal verb to fill in the blank.

Q23. It is obvious that the new law has _____ some revolutionary changes in the current tax system but there are still some points to be revised.
(a) brought about
(b) broken away
(c) taken in
(d) pulled out
(e) come at

Q24. If it weren't for the loan I got from the bank, it would have been impossible for me to _____my own business.
(a) set up
(b) cross out
(c) drop off
(d) take down
(e) throw up

Q25. Though he loved his fiancée very much, the boy acted in accordance with his parent's wishes and _____with her.
(a) set out
(b) turned out
(c) made up
(d) broke up
(e) looked in

Q26. What is the southernmost capital in the world?
(a) Cannbera
(b) Wellington
(c) Cape Town
(d) Buenos Aires

Q27. Longest freshwater lake in the world is ?
(a) Michigan
(b) Superior
(c) Lake Tanganyika
(d) Victoria

Q28. Worlds's largest riverine island?
(a) Bananal Island
(b) Uarini Island
(c) Majuli
(d) Tupinambarana

Q29. Which country is known as 'Land of Morning Calms'?
(a) Japan
(b) China
(c) Indonesia
(d) Korea

Q30. Which river passes through the largest freshwater lake in India?
(a) Satluj
(b) Jhelum
(c) Ganga
(d) Yamuna

Q31. Shooting is a national sport of which country?
(a) Afganistan
(b) Argentina
(c) Bangladesh
(d) Switzerland

Q32. FIFA was established in .....?
(a) 1904
(b) 1900
(c) 1940
(d) 1920

Q33. When was the construction of Red Fort completed?
(a) 1648
(b) 1600
(c) 1669
(d) 1670

Q34. CASTLE term is related to which sport?
(a) Athletics
(b) Chess
(c) Boxing
(d) Cricket

Q35. Where is the headquarter of International Renewable Energy Agency?
(a) New York
(b) Nairobi
(c) Masdar City
(d) Washington DC

Q36. Which among the following was Navratana of Akbar?
(a) Faizi
(b) Fakir Aziao-Din
(c) Abul-Fazal
(d) All of these

Q37. Which of the following party formed out of India?
(a) Bangabhasha Prakasika Sabha
(b) Poona Sarvajanik Sabha
(c) Gadar Party
(d) Swaraj Party

Q38. When was the Planning Commission was established ?
(a) 15 January 1950
(b) 15 January 1960
(c) 15 March 1950
(d) 25 March 1960

Q39. Reykjavik is the capital of which country?
(a) Sweden
(b) Norway
(c) Greenland
(d) Iceland

Q40. Project Tiger was launched in?
(a) 1993
(b) 1990
(c) 1983
(d) 1973

Q41. The term fault is related to which sport?
(a) Cricket
(b) Hockey
(c) Tennis
(d) Football

Q42. Clay courtts are used in which Grand Slam tournaments?
(a) US Open
(b) Wimbeldon
(c) Australian Open
(d) French Open

Q43. Where is the headquarter of World Intellectual Property Organization?
(a) New York
(b) Geneva
(c) London
(d) Nairobi

Q44. Who is also known as Deshbandhu ?
(a) Chittaranjan Das
(b) Rabindranath Tagore
(c) Dadabhai Naoroji
(d) Khan Abdul Ghaffar Khan

Q45. Which country was known as SIAM?
(a) Indonesia
(b) Japan
(c) Myanmar
(d) Thailand

Q46. Thomas cup is related to which sport?
(a) Tennis
(b) Badminton
(c) Football
(d) Cricket

Q47. Which river originates from Gangotri Glacier?
(a) Satluj
(b) Indus
(c) Jhelum
(d) Ganga

Q48. The Bhagirathi River originates from?
(a) Gangotri Glacier
(b) Mansarovar
(c) Kedarnath
(d) Gaumukh Glacier

Q49. Who is the Longest serving PM of India?
(a) Manmohan Singh
(b) Indira Gandhi
(c) Jawaharlal Nehru
(d) Atal Bihari Vajpaee

Q50. Who is known as the Iron Man of India?
(a) Chittaranjan Das
(b) Rabindranath Tagore
(c) Dadabhai Naoroji
(d) Sardar Vallabhbhai Patel

Q51. What is the Currency of thailand?
(a) Paiso
(b) Thai Baht
(c) Dinar
(d) Rupee

Q52. Pattachitra is a traditional painting of which state ?
(a) Odisha
(b) Rajasthan
(c) Tamilnadu
(d) Maharastra

Q53. Which among the following is not the terrestrial planet?
(a) Mercury
(b) Venus
(c) Mars
(d) Jupiter

Q54. Silver revolution is related to
(a) Fish
(b) Eggs
(c) Oil seeds
(d) Flowers

Q55. Which of the following was discovered by Madam Curie ?
(a) Polonium
(b) Radium
(c) Cyanide
(d) Both a and b

Q56. The difference between the compound interest and simple interest for two years compounded annually at 20% p.a is 1331. Find the Principal.
(a) 32275
(b) 33275
(c) 35015
(d) 38975

Q57. A can complete a task in 10 days while B can finish it in 15 days, B left work after 3 days , find the time taken to complete the remaining work by A?
(a) $7\frac{1}{2} days$
(b) 3days
(c) 5days
(d) 4days

Q58. The average of 10 students is 32 while if the age of teacher is included the average increases by 1.5. Find the age of the teacher?
(a) 46.5
(b) 49.5
(c) 47.5
(d) 48.5

Q59. A train passes a pole in 15 seconds , while the same train crosses a platform in 47 seconds if platform length is 640m, then find the length of the train?
(a) 300m
(b) 225m
(c) 375m
(d) 400m

Q60. A shopkeeper gives a successive discount of 40% and 20%. Find the selling price if marked price of the article is Rs.1600?
(a) 778
(b) 768
(c) 868
(d) 878

Q61. The ratio of the speed of the boat upstream and downstream is 4:7. Find the speed of the boat if the speed of stream is 0.5m/sec?
(a) $\frac{1}{6}$
(b) $1\frac{1}{6}$
(c) $1\frac{5}{6}$
(d) 1

Q62. Simplify $\frac{1.11}{19} \times \frac{380}{3.7} \div \left(\frac{1}{2} + \frac{1}{3}\right)$
(a) 5
(b) 6
(c) $7\frac{1}{5}$
(d) 9

Q63. A , B and C can complete a work in 20, 30 and 60 days respectively, Find the time taken to complete the work if B assists with half of its efficiency and C assist on every alternate days?
(a) $13\frac{2}{5}$ days
(b) $13\frac{1}{5}$ days
(c) 14 days
(d) 12days

Q64. A sells two watches one at a gain of 23% while other at the loss of 23%. Find his overall profit/gain percentage ?
(a) no profit and loss
(b) 4%
(c) 3%
(d) 5.29

Q65. The average of 17 observations are 20 if one more observation is added, the average decreases by 2. Find the 18thobservation?
(a) 16
(b) 15
(c) 17
(d) 18

Q66. In how many years the sum of of Rs. 3375 at 30% p.a compounded semi-annually will yield Rs 4096.
(a) 3 years
(b) $1\frac{1}{2} years$
(c) 1 years
(d) 2 years

Q67. A's salary is 25% lower than B's salary, which is 30% lower than C's salary. By how much percent is C's salary greater than B's salary?
(a) 66.66%
(b) 56.25%
(c) 42.85%
(d) 40%

Q68. A person A sells his horse at a discount of 25% to B while B sells the horse to C at a discount of 20%.
C buys for Rs 1800. Find the original price at which A had bought the horse?
(a) 1234
(b) 1500
(c) 2000
(d) 3000

Q69. A person walk from point X and Y at 8am same time B start from Y to X , they meet at O after crossing B takes 16 hrs while A takes 25 hrs. If the speed of A is 24km/hr, then the speed of B?
(a) 32km/hr
(b) 24km/hr
(c) 30km/hr
(d) 35km/hr

Q70. $If\ \frac{A}{5} = \frac{B}{6} = \frac{C}{7}\ , then\ find\ the\ \frac{A+B-C}{2}$
(a) $15\frac{2}{3}$
(b) 15
(c) 14
(d) 11

Q71. Select the Venn diagram that best represent the given classes.
Teacher, College, Student

(a)

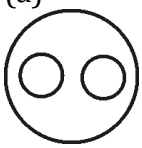

(b)

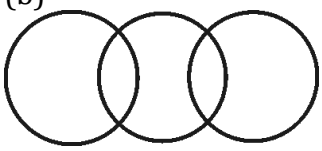

(c)

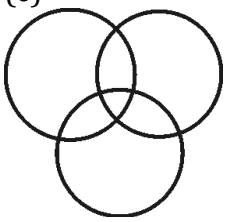

(d)

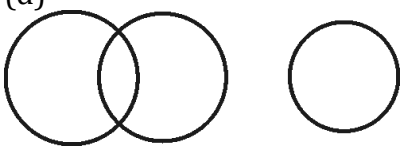

Q72. Select the Venn diagram that best represent the given classes.
Iron, Lead, Nitrogen

(a)

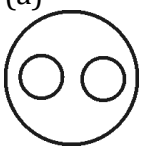

(b)

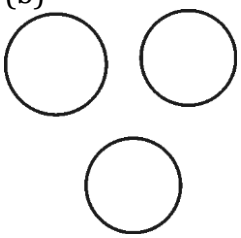

(c)

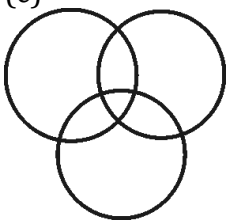

(d)

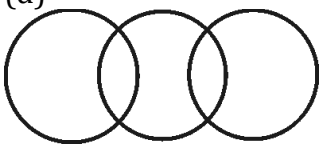

Q73. Select the Venn diagram that best represent the given class.
Musician, Singers, Women

(a)

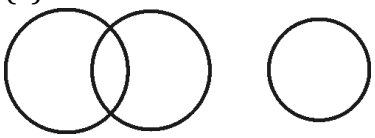

(b)

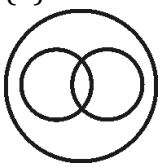

(c)

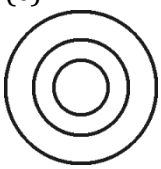

(d)

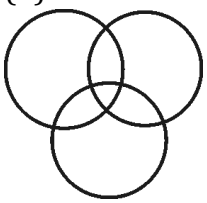

Q74. Select the Venn diagram that best represents the given set of classes.
Indoor games, Chess, Table tennis.

(a)

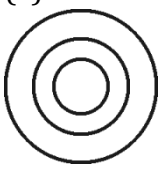

(b)

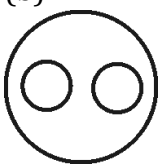

(c)

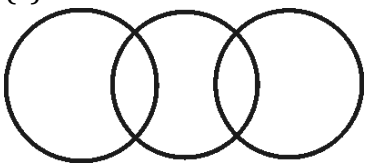

(d)

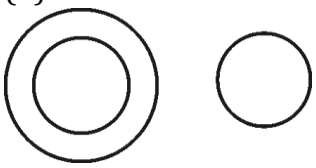

Q75. Complete the series:
Pakistan : Rupee :: Nigeria : ?
(a) Naira
(b) Rupee
(c) Dollar
(d) taka

Q76. Complete the series:
Cataract : Eye :: Pneumonia: ?
(a) kidney
(b) nose
(c) stomach
(d) lungs

Q77. Compete the series:
Bihu : Assam :: Onam : ?
(a) Karnataka
(b) Uttar Pradesh
(c) Tamil Nadu
(d) Kerala

Q78. Complete the series:
International literacy Day : September 8 :: International woman's Day : ?
(a) March 8
(b) June 26
(c) April 22
(d) November 4

Q79. Choose odd one out
(a) Sailor
(b) Tailor
(c) Goldsmith
(d) Blacksmith

Q80. Choose odd one out
(a) Albatross
(b) Ostrich
(c) Pelican
(d) Penguin

Q81. Choose odd one out
(a) Pharynx
(b) Bronchiole
(c) Auricle
(d) Alveoli

Q82. Choose odd one out
(a) Mendicant
(b) Ascetic
(c) Pious
(d) Hermit

Q83. If in a certain code, LUTE is written as MUTE and FATE is written as GATE, then how will BLUE be written in that code.
(a) CLUE
(b) GLUE
(c) FLUE
(d) SLUE

Q84. In, in a code, MIND becomes KGLB and ARGUE becomes YPESC, then what will DIAGRAM be in that code?
(a) BGYEPYK
(b) BGYPYEK
(c) GLPEYKGB
(d) LKBGYPK

Q85. If MUSTARD is written as 132119201184, how is PROFUSE written in that code?
(a) 161815621195
(b) 161816621195
(c) 161815620195
(d) 162015621195

Q86. Choose the option in which the figure marked 'X' is embedded.

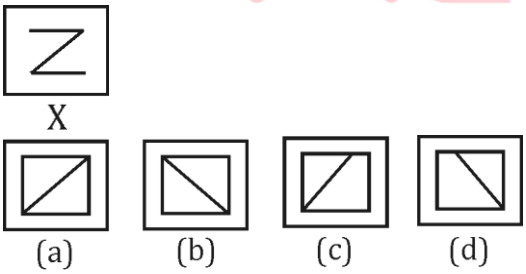

Q87. Choose the option in which the figure marked '×' is embedded.

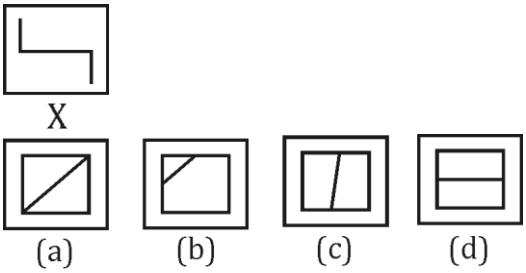

Q88. Choose the option in which the figure marked 'X' is is embedded.

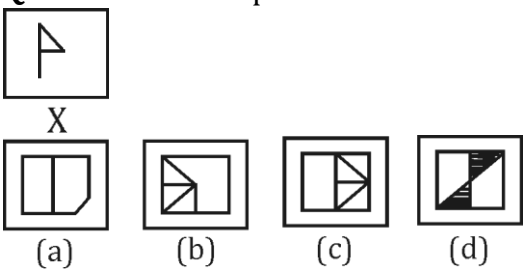

Q89. Choose the option that most closely resembles the mirror of the given figure when mirror is right and when mirror is placed at right side.

PANCHAL

(a) ⅃AHƆИAꟼ

(b) ⅃AHƆИAP

(c) ⅃AHƆNAP

(d) ⅃AHƆNAꟼ

Q90. Choose the option that most closely resembles the water image of the given figure when mirror is placed at right side.

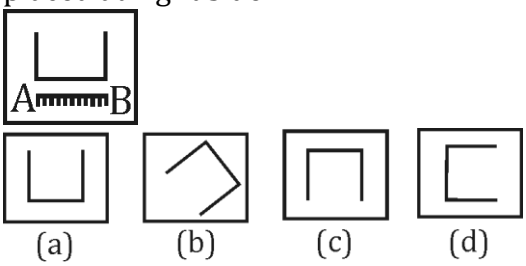

Q91. Identify the alternative which resembles the mirror image of the given word.

DL9Q3574

(a) ƧΛ7ƐϽ9ϽIᗡ

(b) ƧΛ7Ɛ3ϽϽIᗡ

(c) ƧΛ7ƐϽ9ϽIᗡ

(d) ƧΛ7ƐϽ9ϽIᗡ

Q92. If A = 1, CAT = 24, then POLICE = ?

(a) 57

(b) 60

(c) 62

(d) 59

Q93. Find out the two signs to be interchanged to make the following equation correct.

25 + 5 × 7 – 12 ÷ 3 = 26

(a) + and ÷

(b) + and ×

(c) – and ÷

(d) + and –

Q94. Select the option that will correctly replace the question mark (?) in the series.
2, 12, 30, ?, 90, 132
(a) 48
(b) 56
(c) 72
(d) 63

Q95. Select the option that will correctly replace the question mark (?) in the series.
79, 71, 61, 53, 43, ?
(a) 49
(b) 37
(c) 41
(d) 35

Q96. Study the diagram given below and identify the region representing girls who are employed but unmarried.

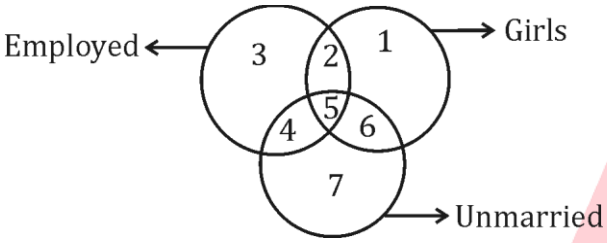

(a) 1
(b) 2
(c) 4
(d) 5

Q97. Which figure represent the relationship among sun, moon, molecule.
(a)

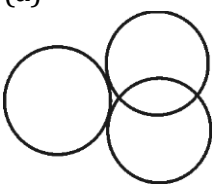

(b)

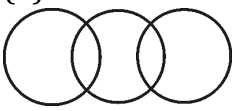

(c)

(d)

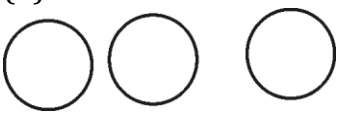

Q98. Which figure best represent the relationship among Men, Vegetables and Cow?

(a)

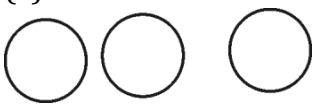

(b)

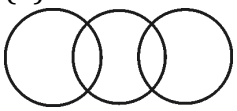

(c)

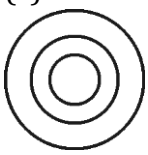

(d)

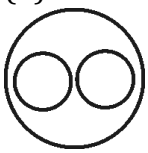

Q99. Select the odd number from the given alternatives.

(a) 23
(b) 29
(c) 37
(d) 33

Q100. Select the odd number from the given alternatives.

(a) 183
(b) 283
(c) 231
(d) 209